ap calc bc reviewww

Rates of change

The **average rate of change** (also AROC, slope of the secant line) of a function f over the interval $[a, b]$ is given by:

$$\frac{f(b) - f(a)}{b - a}$$

The **instantaneous rate of change** (also IROC, slope of the tangent line) of a function f at a point $x = c$ is given by the derivative:

$$f'(c) = \lim_{h \to 0} \frac{f(c + h) - f(c)}{h}$$

This is also known as the **difference quotient** or the **limit definition of the derivative.**

Example: A tangent line to the graph $f(x)$ at the point $x = a$ uses the instantaneous rate of change for the slope. Write the equation of the tangent line to $f(x) = -x^2 + 5$ and then use the tangent line to approximate $f(5.1)$.

Step 1: Find the derivative by the power rule.

$$f(x) = -x^2 + 5$$
$$f'(x) = -2x$$

Step 2: Find the equation of the tangent line at x = 5.

$$f'(5) = -10$$
$$f(5) = -5^2 + 5 = -20$$
$$y + 20 = -10(x - 5)$$
$$y = -10x + 50 - 20$$
$$y = -10x + 30$$

Step 3: Find $f(5.1)$ using the tangent line.

$$\begin{aligned} f(5.1) &\approx -10(5.1) + 30 \\ &= -51 + 30 \\ &= \boxed{-21} \end{aligned}$$

H2 Limits and continuity

The **limit** of a function is the y-value the graph approaches. Limit values are not affected by holes, random points, or sharp turns. However, there are some conditions for a limit to exist:

1. **The limit from the left must equal the limit from the right.** In math terms:

$$\lim_{x \to c^-} f(x) = \lim_{x \to c^+} f(x)$$

   If the limit from the left does not equal the limit from the right, then the limit does not exist (DNE). *If the limit from the left equals the limit from the right and the value of the function equals the value of the limit, then the function is* ***continuous*** *at the given point.*

2. **The limit must approach a finite value.** If the limit approaches infinity, then the limit does not exist (DNE). However, if the limit approaches ∞ or $-\infty$ from both the left and the right, the limit can be considered to exist as either ∞ or $-\infty$.

There are different **types of discontinuities** to consider:

Removable Removable discontinuities can be "removed" when the function is defined at the point of discontinuity. This is represented by a hole in the graph. The limit exists at the hole.

Non-removable jump Jump discontinuities occur when the limit from the left does not equal the limit from the right and both limits approach finite values. This is represented by a jump in the graph. The limit does not exist at the jump.

Asymptotic Asymptotic discontinuities occur when the limit from the left or right approaches ∞ or $-\infty$. This is represented by a vertical asymptote in the graph. The limit does not exist at the asymptote or can be regarded as ∞ or $-\infty$ if the asymptote is an even asymptote.

Oscillating Oscillating discontinuities occur when the function oscillates between two values as it approaches a point. This is represented by a wavy line in the graph that goes up and down indefinitely. The limit does not exist at the oscillation.

Example: In the graph of $f(x) = \dfrac{x+3}{x^2-9}$, at what x-values do removable discontinuities occur? Asymptotic discontinuities? What is the limit (y-value) as x approaches the removable discontinuity?

Step 1: Factor the function and cross out the common factors.

$$f(x) = \frac{x+3}{(x-3)(x+3)}$$
$$f(x) = \frac{1}{x-3}, x \neq -3$$

The removable discontinuity occurs at $x = -3$.

Step 2: Find the limit as x approaches the removable discontinuity.

$$\begin{aligned}\lim_{x\to -3} f(x) &= \lim_{x\to -3} \frac{1}{x-3} \\ &= \frac{1}{-3-3} \\ &= \boxed{-\frac{1}{6}}\end{aligned}$$

Step 3: Find the asymptotic discontinuity.

The asymptotic discontinuity occurs at $x = 3$ because x cannot equal 3 under an y circumstance.

Check with Desmos.

What to do to find...

Limits at a point Direct substitution or algebraic manipulation (factoring, rationalizing, etc.).

Limits at infinity Consider the dominant term in both the numerator and denominator, then simplify.

Horizontal asymptotes Find the limit as x approaches ∞ and $-\infty$. If the limit approaches a finite value, then that value is the horizontal asymptote.

Indeterminate forms Use L'Hopital's rule and find the derivative of the top over the derivative of the bottom (separately, not with quotient rule). DO NOT WRITE "$f(x) = \frac{0}{0}$"!!!! ("$\frac{0}{0}$ indeterminate form" is fine.)

H3 Non-traditional limits

To find non-traditional limits, apply one of the following:

- Evaluate the limit separately from the left and from the right and see if they match.
- If the limit is a composition, evaluate the limit of the inner function first, then evaluate the limit of the outer function as it approaches the limit of the inner function.
- If the limit is a composition and the outer function has a jump discontinuity, evaluate whether the inner function approaches the value of the jump discontinuity from the top (right, +) or from the bottom (left, -), then evaluate the outer function as a one-sided limit.

- If the limit is a composition and the inner function does not merely approach a value but rather stays consistently at that value, then evaluate the outer function at the value of the limit of the inner function.

H4 Differentiation

Refer to derivative rules for a full list.

H5 Graphs of derivatives and derivatives of inverse (trig) functions

The point (a, b) is on $f(x)$, and (b, a) is on $f^{-1}(x)$, its inverse. The derivative of the inverse function is given by:

$$(f^{-1})'(b) = \frac{1}{f'(a)}$$

In other words, the derivative of the inverse at the y-value of a function equals the reciprocal of the derivative of the function at the x-value.

$$\frac{d}{dx}(\sin^{-1} x) = \frac{1}{\sqrt{1-x^2}}$$
$$\frac{d}{dx}(\cos^{-1} x) = \frac{-1}{\sqrt{1-x^2}}$$
$$\frac{d}{dx}(\tan^{-1} x) = \frac{1}{1+x^2}$$

The big derivative puzzle

H6 Position, acceleration, velocity

Velocity is the first derivative of **position** (position is the integral of velocity)
Acceleration is the first derivative of velocity (velocity is the integral of acceleration)
Acceleration is the second derivative of position

Distance vs **displacement**: Distance is the total length traveled, while displacement is the change in position (final position - initial position). To calculate total distance, find the critical points of the velocity function, then evaluate the position function at those points and add the absolute values of the differences.

H7 Implicit differentiation

Example: Find $\frac{dy}{dx}$ if $x^2 + xy + y^2 = 7$.

Step 1: Differentiate both sides with respect to x.

$$\frac{d}{dx}(x^2 + xy + y^2) = \frac{d}{dx}(7)$$
$$2x + x\frac{dy}{dx} + y + 2y\frac{dy}{dx} = 0$$

Step 2: Solve.

$$x\frac{dy}{dx} + 2y\frac{dy}{dx} = -2x - y$$
$$\frac{dy}{dx}(x + 2y) = -2x - y$$
$$\boxed{\frac{dy}{dx} = \frac{-2x - y}{x + 2y}}$$

H8 Related rates

Example: A 15-foot ladder leans against a vertical wall. The bottom is sliding away from the wall at a rate of 2 ft s^{-1}. Let θ be the angle between the ground and the ladder. At what rate is θ changing when the bottom of the ladder is 9 feet from the wall?

Step 1: Draw a picture, label the variables, then list what is given and what is to be found.

- Given: $\frac{dx}{dt} = 2$ ft/s, $x = 9$ ft, ladder length $= 15$ ft
- Find: $\frac{d\theta}{dt}$ when $x = 9$ ft

Step 2: Write an equation relating the variables.

$$\cos\theta = \frac{x}{15}$$

Step 3: Differentiate implicitly with respect to t.

$$-\sin\theta\frac{d\theta}{dt} = \frac{1}{15}\frac{dx}{dt}$$

Step 4: Solve for $\frac{d\theta}{dt}$.

$$\frac{d\theta}{dt} = \frac{-1}{15\sin\theta}\frac{dx}{dt}$$

Step 5: Find $\sin\theta$ when $x = 9$ ft.

$$\begin{aligned}\sin\theta &= \frac{\text{opposite}}{\text{hypotenuse}} \\ &= \frac{\sqrt{15^2 - 9^2}}{15} \\ &= \frac{12}{15} \\ &= \boxed{\frac{4}{5}}\end{aligned}$$

Step 6: Substitute known values and calculate.

$$\begin{aligned}\frac{d\theta}{dt} &= \frac{-1}{15 \cdot \frac{4}{5}} \cdot 2 \\ &= \boxed{\frac{-1}{6} \text{ rad/s}}\end{aligned}$$

H9 Extrema and concavity

Critical points occur when $f'(x) = 0$ or $f'(x)$ is undefined. To find critical points, find the derivative, set it equal to zero, and solve.

Absolute extrema are the highest and lowest points on a closed interval. To find absolute extrema, evaluate the function at the critical points and at the endpoints of the interval, then compare the values.

Local extrema are the highest and lowest points in a small neighborhood. To find local extrema, use the first or second derivative test.

First derivative test: Find the critical points, then test values in the intervals between the critical points to see if the derivative is positive or negative. If $f'(x)$ changes from positive to negative at a critical point, then $f(x)$ has a local maximum at that point. If $f'(x)$ changes from negative to positive at a critical point, then $f(x)$ has a local minimum at that point. If $f'(x)$ does not change sign at a critical point, then $f(x)$ has no local extremum at that point.

Second derivative test: Find the critical points, then find the second derivative. If $f''(x) > 0$ at a critical point, then $f(x)$ has a local minimum at that point. If $f''(x) < 0$ at a critical point, then $f(x)$ has a local maximum at that point. If $f''(x) = 0$ at a critical point, then the test is inconclusive.

Concavity describes the direction the graph is curving. If $f''(x) > 0$, then the graph is concave up. If $f''(x) < 0$, then the graph is concave down. **Inflection points** occur when $f''(x) = 0$ or $f''(x)$ is undefined.

The theorems

Intermediate Value Theorem If f is continuous on closed interval $[a, b]$ and x is any number between $f(a)$ and $f(b)$, then there exists at least one number c in the open interval (a, b) such that $f(c) = x$. Essentially, if a function is continuous, it takes on every value between $f(a)$ and $f(b)$.

Mean Value Theorem If f is continuous on the closed interval $[a, b]$ and differentiable on the open interval (a, b), then there exists at least one number c in the open interval (a, b) such that

$$f'(c) = \frac{f(b) - f(a)}{b - a}$$

In other words, there is at least one point where IROC (slope of the tangent line) equals AROC (slope of the secant line) over the interval.

Extreme Value Theorem If f is continuous on the closed interval $[a, b]$, then f has both a maximum and a minimum value on that interval.

Linearization

Linearization is a method used to approximate the value of a function near a given point using the tangent line at that point.

Example: Approximate the cube root of 82 using linearization.

Step 1: Identify the function and the point of tangency.

$$f(x) = \sqrt[3]{x}, \quad a = 81$$

Step 2: Find the derivative of the function.

$$f'(x) = \frac{1}{3x^{2/3}}$$

Step 3: Evaluate the function and its derivative at the point of tangency.

$$f(81) = 3, \quad f'(81) = \frac{1}{27}$$

Step 4: Write the equation of the tangent line.

Optimization

Optimization involves finding the maximum or minimum values of a function subject to certain constraints.

Example: A farmer wants to build a rectangular pen with a fixed amount of fencing (100 meters). What dimensions will maximize the area of the pen?

Step 1: Define the variables and equations.

Let x be the length and y be the width of the pen. The area A is given by

$$A = xy$$

and the constraint from the fencing is

$$2x + 2y = 100$$

or

$$x + y = 50$$

Step 2: Express one variable in terms of the other using the constraint.

$$y = 50 - x$$

Step 3: Substitute into the area equation.

$$\begin{aligned} A(x) &= x(50 - x) \\ &= 50x - x^2 \end{aligned}$$

Step 4: Find the critical points by taking the derivative and setting it to zero.

$$\begin{gathered} A'(x) = 50 - 2x \\ 0 = 50 - 2x - 2x = -50x = 25 \end{gathered}$$

Step 5: Find the corresponding value of y.

$$y = 50 - 25 = 25$$

Step 6: Conclude with a justification:

The dimensions that maximize the area of the pen are 25 meters by 25 meters because the sign of the first derivative changes from positive to negative at $x = 25$, indicating a maximum.

Estimating with Riemann sums

RRAM Right Rectangular Approximation Method - heights of rects = heights of right endpoints

LRAM Left Rectangular Approximation Method - heights of rects = heights of left endpoints

MRAM Midpoint Rectangular Approximation Method - heights of rects = heights of midpoints

Trapezoidal approximation Average of RRAM and LRAM

Example: Estimate with MRAM the value of $\int_0^4 (x^2 + 1)\, dx$ using 4 subintervals.

Step 1: Determine Δx.

$$\Delta x = \frac{4-0}{4} = 1$$

Step 2: Identify the midpoints of each subinterval.

- Subinterval $[0,1]$: midpoint $= 0.5$
- Subinterval $[1,2]$: midpoint $= 1.5$
- Subinterval $[2,3]$: midpoint $= 2.5$
- Subinterval $[3,4]$: midpoint $= 3.5$

Step 3: Evaluate the function at each midpoint.

$$\begin{aligned} f(0.5) &= (0.5)^2 + 1 = 1.25 \\ f(1.5) &= (1.5)^2 + 1 = 3.25 \\ f(2.5) &= (2.5)^2 + 1 = 7.25 \\ f(3.5) &= (3.5)^2 + 1 = 13.25 \end{aligned}$$

Step 4: Calculate the Riemann sum.

$$\begin{aligned} \text{MRAM} &= \Delta x[f(0.5) + f(1.5) + f(2.5) + f(3.5)] \\ &= 1[1.25 + 3.25 + 7.25 + 13.25] \\ &= \boxed{25} \end{aligned}$$

Writing and interpreting Riemann sums

When converting a Riemann sum of the form

$$\lim_{n\to\infty} \sum_{i=1}^{n} \frac{b}{n} f\left(a + \frac{bi}{n}\right)$$

to a definite integral, follow these steps:

1. Identify Δx (the width of each subinterval) as $\frac{b}{n}$.
2. Identify the function $f(x)$ inside the sum.
3. Determine the limits of integration:
   - The lower limit is a (the starting point of the interval).
   - The upper limit is $a + b$ (the endpoint of the interval).

4. Write the definite integral as

$$\int_a^{a+b} f(x)\,dx$$

Similarly, when writing a Riemann sum for a definite integral of the form

$$\int_a^{a+b} f(x)\,dx$$

follow these steps:

1. Identify the interval $[a, a+b]$ and the function $f(x)$.
2. Determine Δx as $\frac{b}{n}$ (subtract upper limit of integration from lower) and plug into the equation for x as $\frac{bi}{n}$
3. Write the Riemann sum as

$$\lim_{n\to\infty} \sum_{i=1}^{n} \frac{b}{n} f\left(a + \frac{bi}{n}\right)$$

Example: Write the Riemann sum for the definite integral $\int_2^5 (x^2+1)\,dx$.

Step 1: Identify the interval and function.

The interval is $[2, 5]$ and the function is $f(x) = x^2 + 1$.

Step 2: Determine Δx and express x_i.

$$\Delta x = \frac{5-2}{n} = \frac{3}{n}$$
$$x_i = 2 + \frac{3i}{n}$$

Step 3: Write the Riemann sum.

$$\boxed{\lim_{n\to\infty} \sum_{i=1}^{n} \frac{3}{n}\left[\left(2 + \frac{3i}{n}\right)^2 + 1\right]}$$

Definite Integration

Properties of integration

$$\text{Flipping the limits:} \quad \int_a^b f(x)\,dx = -\int_b^a f(x)\,dx$$

$$\text{Sum/Difference:} \quad \int_a^b [f(x) \pm g(x)]\,dx = \int_a^b f(x)\,dx \pm \int_a^b g(x)\,dx$$

$$\text{Constant multiple:} \quad \int_a^b cf(x)\,dx = c\int_a^b f(x)\,dx$$

$$\text{Additivity over intervals:} \quad \int_a^b f(x)\,dx + \int_b^c f(x)\,dx = \int_a^c f(x)\,dx$$

$$\text{Even function:} \quad \int_{-a}^a f(x)\,dx = 2\int_0^a f(x)\,dx$$

$$\text{Odd function:} \quad \int_{-a}^a f(x)\,dx = 0$$

$$\text{Integral of a constant:} \quad \int_a^b c\,dx = c(b-a)$$

Example: $\int_0^\pi \sin x\,dx = 2$. Given this integral, find:

a) $\int_\pi^{2\pi} \sin x\,dx$

b) $\int_0^{2\pi} 3\sin x\,dx$

c) $\int_0^{\frac{\pi}{2}} 3\sin x\,dx$

d) $\int_0^\pi 3\sin x\,dx$

e) $\int_{-\pi}^\pi \sin x\,dx$

Answers:

a) -2 (flipped limits)

b) 6 (constant multiple)

c) 3 (additivity over intervals)

d) 6 (constant multiple)

e) 0 (odd function)

Antiderivatives and indefinite integration

Antiderivative rules are the same as derivative rules, but in reverse. Always +C to the end of indefinite integrals.

Example: Find the antiderivative of $f(x) = 3x^2 - 4x + 5$.

Apply the power rule to each term:

$$\begin{aligned} &\int (3x^2 - 4x + 5)\, dx \\ &= \int (\frac{3x^{2+1}}{2+1} - \frac{4x^{1+1}}{1+1} + \frac{5x^{0+1}}{0+1})\, dx \\ &= \boxed{x^3 - 2x^2 + 5x + C} \end{aligned}$$

The Fundamental Theorem of Calculus

First Fundamental Theorem

If f is continuous on $[a, b]$ and F is an antiderivative of f on $[a, b]$, then

$$\int_a^b f(x)\, dx = F(b) - F(a)$$

Second Fundamental Theorem

The derivative of the integral of a function is the original function:

$$\frac{d}{dx} \int_a^x f(t)\, dt = f(x)$$

Example: Evaluate $\frac{d}{dx} \int_1^{3x} (2t + 3)\, dt$.

Step 1: Use the Second FTC and plug in the upper limit $(3x)$ into the function.

$$\begin{aligned} &2(3x) + 3 \\ &= 6x + 3 \end{aligned}$$

Step 2: Multiply by the derivative of the upper limit.

$$
\begin{aligned}
&(6x+3)\cdot\frac{d}{dx}(3x)\\
&=(6x+3)\cdot 3\\
&=\boxed{18x+9}
\end{aligned}
$$

Average value

The **average value** of a function f on the interval $[a,b]$ is given by

$$f_{\text{avg}}=\frac{1}{b-a}\int_a^b f(x)\,dx$$

.

Integration by u-substitution and change of variable

Use u-substitution when the integral contains a function and its derivative.

Example: Evaluate $\int 2x\sqrt{x^2+1}\,dx$.

Step 1: Choose u to be the inner function.

$$
\begin{aligned}
u&=x^2+1\\
du&=2x\,dx
\end{aligned}
$$

Step 2: Rewrite the integral in terms of u.

$$\int\sqrt{u}\,du$$

Step 3: Integrate with respect to u.

$$
\begin{aligned}
\int\sqrt{u}\,du&=\int u^{1/2}\,du\\
&=\frac{u^{3/2}}{(3/2)}+C\\
&=\frac{2}{3}u^{3/2}+C
\end{aligned}
$$

Step 4: Substitute back to x.

$$\boxed{\frac{2}{3}(x^2+1)^{3/2}+C}$$

Sometimes, u-substitution requires a **change of variable** when the integral does not directly contain the derivative of the inner function.

Example: Evaluate $\int x\sqrt{x-1}\,dx$.

Step 1: Choose u to be the inner function.

$$u = x - 1$$
$$du = dx$$

This u-substitution is not sufficient because there is still an x in the integral. To fix this, apply a change of variable.

Step 2: Solve for x in terms of u.

$$x = u + 1$$

Step 3: Substitute.

$$\int x\sqrt{x-1}\,dx$$
$$= \int (u+1)\sqrt{u}\,du$$
$$= \int (u+1)u^{1/2}\,du$$

Step 4: Distribute.

$$\int (u+1)u^{1/2}\,du$$
$$= \int (u^{3/2} + u^{1/2})\,du$$

Step 5: Integrate with respect to u.

$$\int (u^{3/2} + u^{1/2})\,du$$
$$= \boxed{\frac{2}{5}u^{5/2} + \frac{2}{3}u^{3/2} + C}$$

For definite integrals, either substitute back to x or change the limits of integration to u.

Example: Evaluate the same integral as a definite integral: $\int_1^2 x\sqrt{x-1}\,dx$.

Step 1: As defined previously, $u = x - 1$. Change the limits of integration to u.

When $x = 1$, $u = 1 - 1 = 0$.

When $x = 2$, $u = 2 - 1 = 1$.

Step 2: Evaluate at the new limits of integration.

$$\begin{aligned}
&\left[\frac{2}{5}u^{5/2} + \frac{2}{3}u^{3/2}\right]_{-1}^{0} \\
&= \left(\frac{2}{5} + \frac{2}{3}\right) - (0 + 0) \\
&= \boxed{\frac{16}{15}}
\end{aligned}$$

Inverse trig integration

$$\begin{aligned}
\int \frac{1}{\sqrt{a^2 - x^2}}\,dx &= \arcsin\left(\frac{x}{a}\right) + C \\
\int \frac{1}{a^2 + x^2}\,dx &= \frac{1}{a}\arctan\left(\frac{x}{a}\right) + C \\
\int \frac{1}{x\sqrt{x^2 - a^2}}\,dx &= \frac{1}{a}\operatorname{arcsec}\left(\frac{|x|}{a}\right) + C
\end{aligned}$$

(no need to memorize formulas - memorize forms, use u-substitution instead)

Example: Evaluate $\int \frac{1}{\sqrt{16 - 9x^2}}\,dx$.

Step 1: Reduce the constant to 1.

$$\begin{aligned}
&\int \frac{1}{\sqrt{16 - 9x^2}}\,dx \\
&= \int \frac{1}{16\sqrt{1 - \frac{9}{16}x^2}}\,dx \\
&= \frac{1}{16}\int \frac{1}{\sqrt{1 - \left(\frac{3}{4}x\right)^2}}\,dx
\end{aligned}$$

Step 2: Use u-substitution with $u = \frac{3}{4}x$.

$$\begin{aligned} u &= \frac{3}{4}x \\ du &= \frac{3}{4}dx \\ \frac{4}{3}du &= dx \\ \frac{1}{16} \cdot \frac{4}{3} \int \frac{1}{\sqrt{1-u^2}}\, du \\ = \frac{1}{12} \int \frac{1}{\sqrt{1-u^2}}\, du \end{aligned}$$

Step 3: Use the inverse trig formula.

$$\begin{aligned} \frac{1}{12} \int \frac{1}{\sqrt{1-u^2}}\, du &= \frac{1}{12} \arcsin(u) + C \\ &= \boxed{\frac{1}{12} \arcsin\left(\frac{3}{4}x\right) + C} \end{aligned}$$

Integration by division

Use long division or synthetic division when the degree of the numerator is greater than or equal to the degree of the denominator.

Example: Evaluate $\displaystyle\int \frac{x^2+3x+5}{x+1}\, dx$.

Step 1: Use long division to divide the polynomials.

$$x^2 + 3x + 5 = x + 2 + \frac{3}{x+1}$$

Step 2: Rewrite the integral and solve.

$$\begin{aligned} &\int \frac{x^2+3x+5}{x+1}\, dx \\ &= \int (x + 2 + \frac{3}{x+1})\, dx \\ &= \boxed{\frac{x^2}{2} + 2x + 3\ln|x+1| + C} \end{aligned}$$

How to know which integration method to use

- **Basic antiderivatives:** Check if the integral matches a basic antiderivative formula.
- **u-substitution:** If the integral contains a function and its derivative, consider u-substitution.
- **Change of variable:** Use when u-substitution is not sufficient and a more complex substitution is needed.
- **Long or synthetic division:** Use when the integrand is a rational function where the degree of the numerator is greater than or equal to the degree of the denominator.
- **u-substitution with trigonometry:** Use when the integrand contains inverse trig derivatives.

Slope fields and Euler's method

A slope field is a graphical representation of a differential equation that shows the slope of the solution curve at each point in the plane.

For example, the slope field for the differential equation $\dfrac{dy}{dx} = x^2 - x - 2$ can be drawn by calculating the slope at various points (x, y) and drawing small line segments with those slopes. The result is (from Wikipedia):

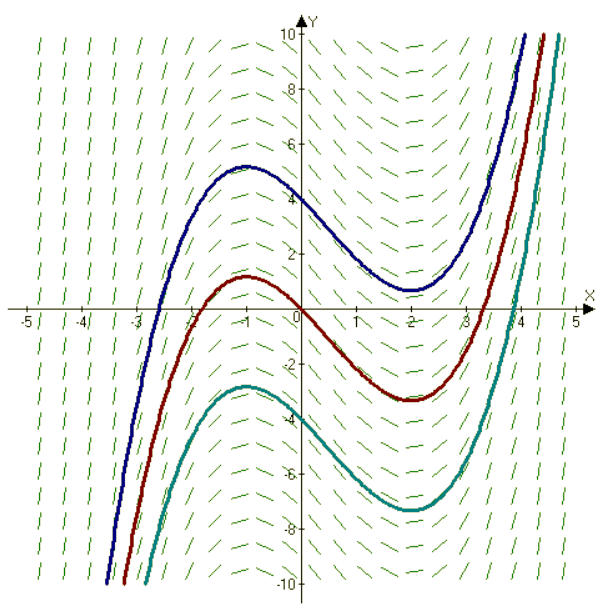

Euler's method is a technique used to approximate solutions to differential equations with a given initial value by using the slope of the function at a given point to estimate the value of the function at the next point.

Example: Use a table and Euler's method to approximate the value of y at $x = 1$ for the differential equation $\frac{dy}{dx} = x + y$ with the initial condition $y(0) = 1$, using a step size of $h = 0.5$. Use $\Delta y = \frac{dy}{dx} \cdot \Delta x$ to find the change in y at each step.

Step 1: Make a table with the initial condition and known values.

x	y	Δx	$\frac{dy}{dx} = x + y$	Δy	$(x + \Delta x, y + \Delta y)$
0	1	0.5	-	-	$(0.5, y)$
0.5	-	0.5	-	-	$(1, y)$

Step 2: Calculate the slope $\frac{dy}{dx}$ at each point and use it to find Δy.

x	y	Δx	$\frac{dy}{dx} = x + y$	Δy	$(x + \Delta x, y + \Delta y)$
0	1	0.5	1	0.5	$(0.5, 1.5)$
0.5	1.5	0.5	2	1	$(1, 2.5)$

Example: Use tangent lines to do the same problem.

Step 1: Find the equation of the tangent line at the initial point.

Given:

$$\frac{dy}{dx} = x + y$$
$$y(0) = 1$$
$$\Delta x = 0.5$$

Finding the tangent line:

$$\frac{dy}{dx} = 0 + 1 = 1$$
$$y - 1 = 1(x - 0)$$
$$y = x + 1$$

Step 2: Use the tangent line to approximate y at $x = 0.5$.

At $x = 0.5$, $y = 0.5 + 1 = 1.5$.

Step 3: Use the new point to find the next tangent line.

$$\frac{dy}{dx} = 1.5 + 0.5 = 2$$
$$y - 1.5 = 2(x - 0.5)$$
$$y = 2x + 0.5$$

Step 4: Use the new tangent line to approximate y at $x = 1$.

At $x = 1$, $y = 2(1) + 0.5 = \boxed{2.5}$.

Both methods yield the same approximation of $y(1) \approx 2.5$.

Separable differential equations

A separable differential equation is one that can be expressed in the form $\frac{dy}{dx} = f(x)g(y)$, allowing the variables to be separated on opposite sides of the equation for integration.

Example: Solve the separable differential equation $\dfrac{dy}{dx} = \dfrac{x}{y}$ with the initial condition $y(0) = 2$.

Step 1: Separate the variables.

$$\frac{dy}{dx} = \frac{x}{y}$$
$$y\,dy = x\,dx$$

Step 2: Integrate both sides to find the general solution.

$$\int y\,dy = \int x\,dx$$
$$\frac{1}{2}y^2 = \frac{1}{2}x^2 + C$$
$$y^2 = x^2 + C$$

Step 3: Use the initial condition to find the particular solution.

$$y^2 = x^2 + C$$
$$y(0) = 2$$
$$2^2 = 0^2 + C$$
$$C = 4$$
$$y = \pm\sqrt{x^2 + 4}$$
$$2 = \pm\sqrt{0^2 + 4}$$
$$2 = \sqrt{4}$$
$$\boxed{y = \sqrt{x^2 + 4}}$$

Logistic equations

A logistic equation is a type of differential equation that models population growth with a carrying capacity.

Typically, the logistic equation is expressed as

$$\frac{dP}{dt} = rP(M - P)$$

where P is the population size, $k = r \cdot M$ is the growth rate, and M is the carrying capacity.

Important things to note:

- The population grows fastest at $P = \frac{M}{2}$, or in the middle of the curve at the point of inflection.
- As P approaches M, the growth rate slows down and the population stabilizes. The rate of change approaches zero as the population approaches its carrying capacity.
- If the equation is not in the standard form, it may need to be manipulated algebraically to identify k and M.

The equation is alternatively expressed as

$$\frac{dP}{dt} = kP\left(1 - \frac{P}{M}\right)$$

where k is the growth rate and M is the carrying capacity.

(review of integrals, skipped)

Integration by parts, solving for the integral, and tabular integration

Integration by parts

Integration by parts is a technique used to integrate products of functions following the formula[1]:

$$\int u\,dv = uv - \int v\,du$$

where u and dv are parts of the original integral.

To identify u, use the initialism **LIATE**, which stands for **L**ogarithmic, **I**nverse trigonometric, **A**lgebraic, **T**rigonometric, and **E**xponential functions. The function that appears first in this list should be chosen as u.

Example: Use integration by parts to evaluate the integral $\int xe^x\,dx$.

Step 1: Identify u and dv with du and v.

Let $u = x$ (algebraic) and $dv = e^x\,dx$. Thus, $du = dx$ and $v = e^x$.[2]

Step 2: Follow the formula.

$$\begin{aligned} & uv - \int v\,du \\ = & xe^x - \int e^x\,dx \end{aligned}$$

Step 3: Integrate.

$$\begin{aligned} & xe^x - \int e^x\,dx \\ = & \boxed{xe^x - e^x + C} \end{aligned}$$

Solving for the integral

Sometimes, applying integration by parts results in an equation that contains the original integral. In such cases, solve for the integral algebraically.

[1] This formula can be memorized with the mnemonic device "ultraviolet voodoo", origin unknown :)

[2] While $u = x$ is not a valid choice for u-substitution since it does not simplify the integral, it does work well for integration by parts.

Consider the following integral:

$$\int e^x \cos x \, dx$$

This integral looks solvable, but applying integration by parts twice will lead back to the original integral. To test this, let $u = e^x$ and $dv = \cos x \, dx$, and therefore $du = e^x \, dx$ and $v = \sin x$. Following the formula

$$\int u \, dv = uv - \int v \, du$$

yields:

$$\int e^x \cos x \, dx = e^x \sin x - \int e^x \sin x \, dx$$

Now, apply integration by parts again to the remaining integral $\int e^x \sin x \, dx$. Let $u = e^x$ and $dv = \sin x \, dx$, so $du = e^x \, dx$ and $v = -\cos x$. Applying the formula again gives:

$$\int e^x \sin x \, dx = -e^x \cos x + \int e^x \cos x \, dx$$

Substituting this back into the previous equation results in:

$$\int e^x \cos x \, dx = e^x \sin x - \left(-e^x \cos x + \int e^x \cos x \, dx \right)$$

This simplifies to:

$$\int e^x \cos x \, dx = e^x \sin x + e^x \cos x - \int e^x \cos x \, dx$$

Now, the original integral is on both sides of the equation. To solve for it, add $\int e^x \cos x \, dx$ to both sides:

$$2 \int e^x \cos x \, dx = e^x (\sin x + \cos x)$$

Finally, divide both sides by 2 to isolate the integral:

$$\int e^x \cos x \, dx = \boxed{\frac{e^x (\sin x + \cos x)}{2} + C}$$

Tabular integration

Tabular integration is a method used to simplify the process of integration by parts when one function can be differentiated repeatedly until it becomes zero, and the other function can be integrated repeatedly.

Example: Use tabular integration to evaluate the integral $\int x^3 e^x \, dx$.

Step 1: Set up the table and differentiate u until the left side reaches 0. Integrate dv the same number of times.

u	dv
x^3	e^x
$3x^2$	e^x
$6x$	e^x
6	e^x
0	e^x

Step 2: Multiply diagonally, alternating signs, and sum the results.

$$+x^3e^x$$
$$-3x^2e^x$$
$$+6xe^x$$
$$-6e^x$$

Step 3: Write the final answer.

$$\int x^3 e^x \, dx = \boxed{e^x(x^3 - 3x^2 + 6x - 6) + C}$$

Partial fractions

Partial fraction decomposition is a technique used to break down a complex rational function into simpler fractions that are easier to integrate.

For each fraction in the partial fraction decomposition, the numerator should always be **one degree more** than the denominator.

Example: Evaluate $\int \frac{2x+3}{(x-1)(x+2)} \, dx$.

Step 1: Set up the decomposition. The denominator is always one degree more than the numerator.

$$\frac{2x+3}{(x-1)(x+2)} = \frac{A}{x-1} + \frac{B}{x+2}$$

Step 2: Multiply both sides by the denominator to eliminate the fractions.

$$2x+3 = A(x+2) + B(x-1)$$
$$2x+3 = Ax + 2A + Bx - B$$

Step 3: Solve for A and B.

$$A + B = 2$$
$$2A - B = 3$$
$$3A = 5$$
$$A = \frac{5}{3} B = \frac{1}{3}$$

Step 4: Substitute and integrate.

$$\int \frac{2x+3}{(x-1)(x+2)}\,dx = \int \frac{5/3}{x-1} + \frac{1/3}{x+2}\,dx$$
$$= \boxed{\frac{5}{3}\ln|x-1| + \frac{1}{3}\ln|x+2| + C}$$

Area between curves

The area between two curves can be found by integrating the difference between the two functions from the leftmost intersection point to the rightmost intersection point. For sideways curves, integrate from the bottommost intersection point to the topmost intersection point (as a function of y).

Sequences

A **sequence** is a list of elements.

$$2, 4, 6, 8 \ldots \quad a_n = 2n \quad \text{arithmetic sequence}$$
$$1, \frac{1}{2}, \frac{1}{4}, \frac{1}{8}, \frac{1}{16} \ldots \quad a_n = \frac{1}{2^{n-1}} \quad \text{geometric sequence}$$
$$1, \frac{1}{2}, \frac{1}{6}, \frac{1}{24}, \frac{1}{120} \ldots \quad a_n = \frac{1}{n!}$$

H2 Series and convergence

A **series** is the sum of the elements of a sequence.

Vocabulary and formulas

$$\begin{aligned}
\textbf{Infinite series:} \quad & \sum_{n=1}^{\infty} a_n = a_1 + a_2 + a_3 + \dots \\
\textbf{Geometric series:} \quad & \sum_{n=0}^{\infty} ar^n \\
\textbf{Sum of geometric series:} \quad & S = \frac{a}{1-r} \quad \text{if } |r| < 1 \\
\textbf{Partial sum:} \quad & S_n \\
\textbf{Sum of series:} \quad & S
\end{aligned}$$

nth-term test

If $\sum_{n=1}^{\infty} a_n$ *converges*, then $\lim_{n\to\infty} a_n = 0$.

This is *not* saying that if the limit of the terms in the sequence goes to 0, then the series converges. If the limit goes to 0, further tests are needed to determine convergence.

If $\lim_{n\to\infty} a_n \neq 0$, then $\sum_{n=1}^{\infty} a_n$ *diverges.*

Example: Determine whether the series $\sum_{n=1}^{\infty} \frac{n^2+2}{n}$ converges or diverges.

Determine the limit:

$$\lim_{n\to\infty} \frac{n^2+2}{n} = \infty$$

because the degree of the numerator is greater than the degree of the denominator.

Since the limit does not equal 0, the series **diverges** by the nth-term test.

Geometric series test

All that is needed to prove convergence of a geometric series is to show that the common ratio r satisfies $|r| < 1$.

Example: Determine whether the series $\sum_{n=0}^{\infty} \left(\frac{3}{4}\right)^n$ converges or diverges. If it converges, find the sum.

Step 1: Find the common ratio and determine whether the series converges or diverges.

The common ratio is $r = \frac{3}{4}$. Since $|r| = \frac{3}{4} < 1$, the series **converges**.

Step 2: Find the sum.

$$\begin{aligned} S &= \frac{a}{1-r} \\ &= \frac{1}{1-\frac{3}{4}} \\ &= \frac{1}{\frac{1}{4}} \\ &= \boxed{\text{converges to } 4} \end{aligned}$$

Telescoping series test

A **telescoping series** is a series where many terms cancel out when writing the partial sums. These often involve partial fractions.

Example: Determine whether the series $\sum_{n=1}^{\infty} \frac{1}{n(n+1)}$ converges or diverges. If it converges, find the sum.

Step 1: Separate using partial fractions.

$$\begin{aligned} \frac{1}{n(n+1)} &= \frac{A}{n} + \frac{B}{n+1} \\ A(n+1) + B(n) &= 1 \\ An + A + Bn &= 1 \\ A &= 1 \\ B &= -1 \\ \frac{1}{n(n+1)} &= \frac{1}{n} - \frac{1}{n+1} \end{aligned}$$

Step 2: Write out the sequence.

$$\sum_{n=1}^{\infty} \frac{1}{n} - \frac{1}{n+1} = 1 - \frac{1}{2} + \frac{1}{2} - \frac{1}{3} + \frac{1}{3} - \frac{1}{4} + \frac{1}{4} \cdots - \frac{1}{n+1}$$

Step 3: Take the limit of the series.

$$S = 1 - \frac{1}{n+1}$$
$$\lim_{n\to\infty} 1 - \frac{1}{n+1}$$
$$= \boxed{\text{converges to } 1}$$

H3 Integral test and p-series

Integral test

If $f(x)$ is **positive, continuous, and decreasing** for $x \geq 1$ and $f(n) = a_n$, then the series $\sum_{n=1}^{\infty} a_n$ and the integral $\int_1^{\infty} f(x)\,dx$ either both converge or both diverge.

p-series

A **p-series** is a series of the form $\sum_{n=1}^{\infty} \frac{1}{n^p}$ where p is a positive constant.

If $p > 1$, the series *converges*. Otherwise, the series *diverges*.

A special case occurs at $p = 1$, which is the harmonic series $\sum_{n=1}^{\infty} \frac{1}{n}$. This series *diverges*.

H4 Comparison tests

Direct comparison test

The direct comparison test involves comparing the given series to a known series.

Given a_n and b_n are **positive terms** for all n:

If $\sum b_n$ *converges* and $a_n \leq b_n$ for all n, then $\sum a_n$ *converges*.

If $\sum a_n$ *diverges* and $a_n \leq b_n$ for all n, then $\sum b_n$ *diverges*.

Example: Determine whether the series $\sum_{n=1}^{\infty} \frac{n^2+2}{n^4+5}$ converges or diverges.

Step 1: Choose a series to compare to and set up the inequality.

$$\frac{n^2+2}{n^4+5} < \frac{n^2+2}{n^4}$$

Step 2: Simplify the inequality.

$$\frac{n^2+2}{n^4} = \frac{1}{n^2} + \frac{2}{n^4}$$

Step 3: Determine whether the comparison series converges or diverges.

Because both $\sum_{n=1}^{\infty} \frac{1}{n^2}$ and $\sum_{n=1}^{\infty} \frac{2}{n^4}$ are p-series with $p > 1$, both series **converge.** Therefore, $\boxed{\text{by the direct comparison test, the original series } \textbf{converges.}}$

Limit comparison test

Given a_n and b_n are positive terms for all n, and $\lim_{n\to\infty} \frac{a_n}{b_n} = c$, where c is a finite number and $c > 0$, then $\sum a_n$ and $\sum b_n$ either both converge or both diverge.

Example: Determine whether the series $\sum_{n=0}^{\infty} \frac{1}{3^n - n}$ converges or diverges given that the series has positive terms.

Step 1: Choose a series to compare to.

Because the dominant term on the denominator is 3^n, we can compare to the geometric series $\sum_{n=0}^{\infty} \frac{1}{3^n}$.

Step 2: Find the limit of the ratio of the two series.

$$\begin{aligned}
&\lim_{n\to\infty} \frac{\frac{1}{3^n-n}}{\frac{1}{3^n}} \\
&= \lim_{n\to\infty} \frac{3^n}{3^n - n} \\
&= \lim_{n\to\infty} \frac{1}{1 - \frac{n}{3^n}} \\
&= 1
\end{aligned}$$

The limit is a finite, positive value, so we move on with the limit comparison test.

Step 3: Determine whether the comparison series converges or diverges.

$$\frac{1}{3^n} = \left(\frac{1}{3}\right)^n$$

Because the common ratio r of the geometric series is $\frac{1}{3}$ ($|r| < 1$), the series **converges.** Therefore, $\boxed{\text{by the limit comparison test, the original series } \textbf{converges.}}$

H5 Alternating series test

The **alternating series test** can be used on any alternating series of the form $\sum_{n=1}^{\infty}(-1)^{n-1}a_n$ or $\sum_{n=1}^{\infty}(-1)^{n}a_n$, where $a_n > 0$ to test if it **converges.**

The series converges if both of the following conditions are met:

(a) $a_{n+1} \leq a_n$ for all n (the terms are decreasing)

(b) $\lim_{n\to\infty} a_n = 0$

If either condition is not met, the test is **inconclusive.**

Example: Determine if the series $\sum_{n=1}^{\infty}\frac{(-1)^{n+1}}{n}$ converges or diverges.

Step 1: Check if the limit of the terms goes to 0.

Because the degree of the denominator is greater than the degree of the numerator,

$$\lim_{n\to\infty}\frac{1}{n} = 0$$

Step 2: Check if the terms decrease.

Because $\frac{1}{n+1} < \frac{1}{n}$ for all n, the terms decrease.

Step 3: Conclude and justify.

$\boxed{\text{By the alternating series test, the series converges.}}$

Alternating Series Remainder

The **remainder** R_N is the absolute difference between the sum of the series S and the Nth partial sum S_N.

From the textbook:

"If a convergent alternating series satisfies the condition $a_{n+1} \leq a_n$, then the absolute value of the remainder R_N involved in approximating the sum S by S_N is less than (or equal to) the first neglected term. That is,

$$|S - S_N| = |R_N| \leq a_{N+1}.$$

"

In simpler terms, for a convergent alternating series that is decreasing, the error made by stopping at the Nth term is less than or equal to the absolute value of the next term.

For example, for the series $\sum_{n=1}^{\infty} \frac{(-1)^{n+1}}{n}$, if we approximate the sum by stopping at the 4th term (which is S_4), the error, $|S - S_4|$, is less than or equal to $\frac{1}{5}$ (which is a_5).

$$|S - S_4| \leq \frac{1}{5}$$

Example: Use the alternating series error bound to find an upper and lower bound for the sum of the series $\sum_{n=1}^{\infty} (-1)^n \frac{3}{3n^{\frac{1}{3}} + 5}$ by approximating with the first four terms.

Step 1: Find the fourth partial sum S_4.

$$S_4 = -0.048$$

Step 2: Find the next term a_5.

$$a_5 = \frac{3}{3(5)^{\frac{1}{3}} + 5} \approx 0.296$$

Step 3: Find the upper and lower bounds. Lower bound $= S_4 - a_5$, upper bound $= S_4 + a_5$.

$$\text{Lower bound} = -0.048 - 0.296 = -0.344$$
$$\text{Upper bound} = -0.048 + 0.296 = 0.248$$

$$\boxed{-0.344 \leq S \leq 0.248}$$

Absolute and conditional convergence

A series $\sum_{n=1}^{\infty} a_n$ is said to be **absolutely convergent** if the series of absolute values $\sum_{n=1}^{\infty} |a_n|$ converges.

If a series $\sum_{n=1}^{\infty} a_n$ converges but the series of absolute values $\sum_{n=1}^{\infty} |a_n|$ diverges, then the series is said to be **conditionally convergent**.

H7 Ratio and root tests

Ratio test

Given a series $\sum_{n=1}^{\infty} a_n$, let

$$L = \lim_{n\to\infty} \left| \frac{a_{n+1}}{a_n} \right|.$$

- If $L < 1$, the series **converges absolutely.**
- If $L > 1$, the series **diverges.**
- If $L = 1$, the test is **inconclusive.**

Root test

Given a series $\sum_{n=1}^{\infty} a_n$, let

$$L = \lim_{n\to\infty} \sqrt[n]{|a_n|}.$$

- If $L < 1$, the series **converges absolutely.**
- If $L > 1$, the series **diverges.**
- If $L = 1$, the test is **inconclusive.**

Review of tests

Test	Conditions	Procedure	C or D?
nth-term	none	Find $\lim_{n\to\infty} a_n$. If the limit is **not** 0, the series diverges.	Divergence
geometric series	none	Find the common ratio r. If $\lvert r\rvert < 1$, converges. Otherwise, diverges.	Both
p-series	none	If $p > 1$, converges. Otherwise, diverges.	Both
telescoping series	none	Cancel the middle terms and take the limit as n goes to infinity of the first and last term. If the limit exists and is finite, the series converges.	Both
integral test	positive, continuous, and decreasing	Evaluate $\int_1^\infty f(x)\,dx$. If the integral converges, the series converges. Otherwise, it diverges.	Both
direct comparison	positive	Compare original series to a known series. Designate the smaller series as a_n and the greater as b_n ($a_n < b_n$). **If a_n converges, the original series converges. If b_n diverges, the original series diverges.**	Both
limit comparison	positive	Compare original series a_n to a known series b_n. Find $\lim_{n\to\infty} \frac{a_n}{b_n} = c$. If c is finite and $c > 0$, both series either converge or diverge.	Both
alternating series	positive, decreasing	Check that $\lim_{n\to\infty} a_n = 0$ to conclude the series converges	Convergence
ratio	none	Find $\lim_{n\to\infty} \left\lvert \frac{a_{n+1}}{a_n} \right\rvert = L$. If $L < 1$, converges. If $L > 1$, diverges. If $L = 1$, inconclusive.	Both
root	none	Find $\lim_{n\to\infty} \sqrt[n]{\lvert a_n\rvert} = L$. If $L < 1$, converges. If $L > 1$, diverges. If $L = 1$, inconclusive.	Both

Taylor polynomials

The Taylor series of a function $f(x)$ centered at $x = a$ is given by:

$$f(x) = \sum_{n=0}^{\infty} \frac{f^{(n)}(a)}{n!}(x-a)^n = f(a) + f'(a)(x-a) + \frac{f''(a)}{2!}(x-a)^2 + \frac{f'''(a)}{3!}(x-a)^3 + \dots$$

An nth-degree Taylor polynomial is given by:

$$P_n(x) = a_0 + a_1(x-a) + \frac{a_2}{2!}(x-a)^2 + \frac{a_3}{3!}(x-a)^3 + \cdots + \frac{a_n}{n!}(x-a)^n$$

where

Similar to linearization, this series approximates the function $f(x)$ near the point $x = a$ with a polynomial function.

Example: Find the 5th-order (5 derivatives) Taylor polynomial for $f(x) = e^{1-x}$ centered at $x = 0$.

Step 1: Find the derivatives of $f(x)$ and evaluate them at $x = 0$.

$$\begin{gathered} f(0) = e \\ f'(0) = -e \\ f''(0) = e \\ f'''(0) = -e \\ f^{(4)}(0) = e \\ f^{(5)}(0) = -e \end{gathered}$$

Step 2: Substitute into the Taylor polynomial formula.

$$P_5(x) = e - ex + \frac{e}{2!}x^2 - \frac{e}{3!}x^3 + \frac{e}{4!}x^4 - \frac{e}{5!}x^5$$

Lagrange error bound

The **Lagrange error bound** gives an upper bound for the error when approximating a function $f(x)$ using its Taylor polynomial $P_n(x)$:

$$|R_n(x)| \leq \frac{M}{(n+1)!}|x-a|^{n+1}$$

where:

- $R_n(x)$ is the remainder (error) after approximating $f(x)$ with the nth-degree Taylor polynomial $P_n(x)$.
- M is the **absolute value** of the **greatest value** of $|f^{(n+1)}(z)|$ for some z **between the centre and the x-value of the function** that is being approximated.
- n is the degree of the Taylor polynomial.
- a is the center of the Taylor series.
- x is the point at which the function is approximated.

Example: Find an upper bound for the error when approximating $f(x) = \ln(x)$ using a 3rd-degree Taylor polynomial centered at $x = 1$ to approximate $f(1.5)$.

Step 1: Find the 4th derivative of $f(x)$.

$$\begin{aligned} f(x) &= \ln(x) \\ f'(x) &= \frac{1}{x} \\ f''(x) &= -\frac{1}{x^2} \\ f'''(x) &= \frac{2}{x^3} \\ f^{(4)}(x) &= -\frac{6}{x^4} \end{aligned}$$

Step 2: Find M.

The maximum absolute value of the derivative between $x = 1$ and $x = 1.5$ is at $x = 1$:

$$M = \left|f^{(4)}(1)\right| = 6$$

Step 3: Substitute into the Lagrange error bound formula.

$$\begin{aligned} |R_3(1.5)| &\leq \frac{6}{4!}|1.5 - 1|^4 \\ &= \frac{6}{24}(0.5)^4 \\ &= \boxed{0.003125} \end{aligned}$$

Power series

The power series is a series of the form:

$$\sum_{n=0}^{\infty} a_n(x-c)^n = a_0 + a_1(x-c) + a_2(x-c)^2 + a_3(x-c)^3 + \dots$$

where a_n represents the coefficients of the series, c is the center of the series, and x is the variable.

Convergence of power series

Three cases:

1. series converges only at c
2. series converges absolutely for all x
3. series converges for $|x-c| < R$ and diverges for $|x-c| > R$ (where R is the radius of convergence); **interval of convergence** is the value of x for which the series converges

To find the radius and interval of convergence, use the **ratio test** or the **root test.**

Important!

1. **Check endpoints** to be sure whether the constraints should be strict or include endpoints. (for example, $-1 < x < 1$ or $-1 \leq x < 1$)
2. The radius of convergence is **the center minus the endpoint** and is always non-negative. (for example, if the interval of convergence is $-2 < x < 4$, the center is 1 and the radius is 3)

Example: Find the center of the power series $\displaystyle\sum_{n=0}^{\infty} \frac{x^n}{n\sqrt{n}\cdot 3^n}$, the radius of convergence, and the interval of convergence.

Step 1: Find the center.

The series is in the form $\displaystyle\sum_{n=0}^{\infty} a_n(x-c)^n$. So, $\boxed{c=0}$.

Step 2: Use the ratio test to find the radius of convergence.

$$\begin{aligned}
L &= \lim_{n\to\infty}\left|\frac{x^{n+1}}{(n+1)\sqrt{n+1}\cdot 3^{n+1}}\cdot\frac{n\sqrt{n}\cdot 3^n}{x^n}\right| \\
&= \lim_{n\to\infty}\left|\frac{x}{3}\cdot\frac{n\sqrt{n}}{(n+1)\sqrt{n+1}}\right| \\
&= \left|\frac{x}{3}\right| \lim_{n\to\infty}\frac{n}{n+1}\cdot\lim_{n\to\infty}\frac{\sqrt{n}}{\sqrt{n+1}} \\
&= \frac{x}{3}
\end{aligned}$$

For convergence, $L < 1$:

$$\left|\frac{x}{3}\right| < 1$$
$$|x| < 3$$

So, the radius of convergence is $\boxed{R = 3}$.

Step 3: Find the interval of convergence.

$$-1 < \frac{x}{3} < 1$$
$$\boxed{-3 < x < 3}$$

For any power series, the interval of convergence is the same for its derivative and its integral. However, the endpoints may differ.

Example: Find the interval of convergence of $\displaystyle\sum_{n=0}^{\infty} \frac{(-1)^{n+1}(x-1)^{n+1}}{n+1}$, of its derivative, and its integral.

Step 1: Identify the center and interval of convergence of the original function.

The center is $c = 1$, as 1 is subtracted from x.

Because this is a geometric series with common ratio $r = x - 1$, the interval of convergence is:

$$|x-1| < 1$$
$$-1 < x - 1 < 1$$
$$\boxed{0 < x < 2}$$

Step 2: Take the derivative.

Treating n (and $(-1)^{n+1}$)as a constant, take the derivative with respect to x by using the power rule:

$$\frac{d}{dx}\sum_{n=0}^{\infty} \frac{(-1)^{n+1}(x-1)^{n+1}}{n+1} = \sum_{n=0}^{\infty}(-1)^{n+1}(x-1)^{n}$$

Step 3: Test the endpoints of the derivative.

For $x = 0$:

$$\sum_{n=0}^{\infty}(-1)^{n+1}(-1)^n$$

This series **diverges** because the limit of the terms does not go to 0 (nth-term test).

For $x = 2$:

$$\sum_{n=0}^{\infty}(-1)^{n+1}(1)^n$$

This series **diverges** because the limit of the terms does not go to 0 (nth-term test).

$\boxed{0 < x < 2}$

Step 4: Take the integral of the original function.

$$\int \sum_{n=0}^{\infty} \frac{(-1)^{n+1}(x-1)^{n+1}}{n+1}\,dx = \sum_{n=0}^{\infty} \frac{(-1)^{n+1}(x-1)^{n+2}}{(n+1)(n+2)} + C$$

Step 5: Test the endpoints of the integral.

For $x = 0$:

$$\sum_{n=0}^{\infty} \frac{(-1)^{n+1}(-1)^{n+2}}{(n+1)(n+2)} + C$$

This series **converges** by the alternating series test.

For $x = 2$:

$$\sum_{n=0}^{\infty} \frac{(-1)^{n+1}(1)^{n+2}}{(n+1)(n+2)} + C$$

This series **converges** by the alternating series test.

$$\boxed{0 \leq x \leq 2}$$

Representing functions as power series

To represent a function as a power series, recall the equation

$$S = \frac{a}{1-r}$$

Using this function, identify a and r, and then substitute into the formula to find the power series representation of the function.

Example: Find a power series representation for $g(x) = \dfrac{4x}{x^2 + 2x - 3}$ and find the interval of convergence.

Step 1: Factor the denominator. By applying partial fractions, we can rewrite the function as:

$$\begin{gathered}
4x = \frac{A}{x+3} + \frac{B}{x-1} \\
A(x-1) + B(x+3) = 4x \\
Ax - A + Bx + 3B = 4x \\
A + B = 4 \\
-A + 3B = 0 \\
A = 3 \\
B = 1 \\
g(x) = \frac{3}{x+3} + \frac{1}{x-1}
\end{gathered}$$

Step 2: Identify a and r for each term.

For $\dfrac{3}{x+3}$:

$$\frac{3}{x+3} = \frac{3/3}{x/3 + 3/3} = \frac{1}{1 + x/3}$$

a is 1 and r is $-x/3$.

For $\dfrac{1}{x-1}$:

$$\frac{1}{x-1} = \frac{-1}{1-x}$$

a is -1 and r is x.

Step 3: Substitute into the formula $S = \frac{a}{1-r}$ to find the power series representation.

$$\boxed{\sum_{n=0}^{\infty} \left(\frac{-x}{3}\right)^n - \sum_{n=0}^{\infty} x^n}$$

Step 4: Find the interval of convergence.

For $\dfrac{3}{x+3}$:

$$\left|\frac{-x}{3}\right| < 1$$
$$|x| < 3$$
$$-3 < x < 3$$

For $\dfrac{1}{x-1}$:

$$|x| < 1$$
$$-1 < x < 1$$

The interval of convergence is the intersection of the two intervals, which is $\boxed{-1 < x < 1}$.

Taylor and Maclaurin series

(To be perfectly honest, I'm not completely sure what we've learned in this section, except for the fact that we are supposed to solve seemingly impossible problems. Apologies for any inaccuracies and please do let me know if you see any.)

The six series to memorize are:

$$\frac{1}{1-x} = \sum_{n=0}^{\infty} x^n = 1 + x + x^2 + x^3 + \dots$$
$$\frac{1}{1+x} = \sum_{n=0}^{\infty} (-1)^n x^n = 1 - x + x^2 - x^3 + \dots$$
$$e^x = \sum_{n=0}^{\infty} \frac{x^n}{n!} = 1 + x + \frac{x^2}{2!} + \frac{x^3}{3!} + \dots$$
$$\sin x = \sum_{n=0}^{\infty} \frac{(-1)^n x^{2n+1}}{(2n+1)!} = x - \frac{x^3}{3!} + \frac{x^5}{5!} - \dots$$
$$\cos x = \sum_{n=0}^{\infty} \frac{(-1)^n x^{2n}}{(2n)!} = 1 - \frac{x^2}{2!} + \frac{x^4}{4!} - \dots$$
$$\ln x = \sum_{n=1}^{\infty} \frac{(-1)^{n+1}(x-1)^n}{n} = (x-1) - \frac{(x-1)^2}{2} + \frac{(x-1)^3}{3} - \dots$$

Example: Find the Maclaurin series for $\displaystyle\int (e^{-t/2} - 1)dt$.

Step 1: Use the Maclaurin series for e^x to find the Maclaurin series for $e^{-t/2}$.

$$e^{-t/2} = \sum_{n=0}^{\infty} \frac{(-t/2)^n}{n!} = \sum_{n=0}^{\infty} \frac{(-1)^n}{n!} t^{2n}$$

Step 2: Subtract 1 from the series.

Because the first term of the series is 1, to subtract 1, start the series at $n = 1$ instead of $n = 0$:

$$e^{-t/2} - 1 = \sum_{n=1}^{\infty} \frac{(-1)^n}{n!} t^{2n}$$

Step 3: Substitute the integrand for the series.

$$\int (e^{-t/2} - 1)dt = \int \sum_{n=1}^{\infty} \frac{(-1)^n}{n!} t^{2n} dt$$

Step 4: Integrate the series.

Because $\frac{(-1)^n}{n!}$ is a constant, it gets pulled out of the integral. The rest of the integral becomes

$$\int t^{2n} dt = \frac{t^{2n+1}}{2n+1} + C$$

Evaluated from 0 to x, the integral becomes

$$\frac{x^{2n+1}}{2n+1}$$

Step 5: Substitute the integrated series back into the summation.

$$\boxed{\sum_{n=1}^{\infty} \frac{(-1)^n}{n!} \cdot \frac{x^{2n+1}}{2n+1}}$$

Parametric equations

A parametric equation is a pair of equations that define a curve in the plane. The equations are typically written in the form $x = f(t)$ and $y = g(t)$, where t is a **parameter** that varies over some interval.

The curve defined by the parametric equations can be traced out by varying the parameter t from its starting value to its ending value, drawing arrows to indicate directionality.

Eliminating the parameter

To eliminate the parameter, solve one of the equations for t and then substitute that expression into the other equation.

Example: Given the parametric equations $x = 2t+1$ and $y = t^2-3$, eliminate the parameter to find an equation in terms of x and y.

$$x = 2t + 1$$
$$t = \frac{x-1}{2}$$
$$y = t^2 - 3$$
$$y = \left(\frac{x-1}{2}\right)^2 - 3$$
$$\boxed{y = \frac{(x-1)^2}{4} - 3}$$

For trigonometric functions, use a Pythagorean identity.

Example: Given the parametric equations $x = 4\cos(t)$ and $y = 4\sin(t)$, eliminate the parameter to find an equation in terms of x and y. Determine the shape of the curve.

$$x = 4\cos(t)$$
$$y = 4\sin(t)$$

Using the Pythagorean identity $\sin^2(t) + \cos^2(t) = 1$:

$$\left(\frac{x}{4}\right)^2 + \left(\frac{y}{4}\right)^2 = 1$$
$$\boxed{\frac{x^2}{16} + \frac{y^2}{16} = 1}$$

The curve is a $\boxed{\text{circle}}$.

Tangent lines

$$\frac{dy}{dx} = \frac{\frac{dy}{dt}}{\frac{dx}{dt}}$$

$$\frac{d^2y}{dx^2} = \frac{\frac{d}{dt}\left(\frac{dy}{dx}\right)}{\frac{dx}{dt}}$$

Example: Find the slope of the tangent line to the curve and the concavity of the curve defined by the parametric equations $x = 4\cos(t)$ and $y = 4\sin(t)$ at the point where $t = \frac{\pi}{4}$.

Step 1: Find the first derivative and plug in the value of t to get the slope.

$$\begin{aligned}
\frac{dy}{dx} &= \frac{\frac{dy}{dt}}{\frac{dx}{dt}} \\
&= \frac{4\cos(t)}{-4\sin(t)} \\
&= -\cot(t) \\
-\cot(t)|_{t=\frac{\pi}{4}} &= -1 \\
&\boxed{m = 1}
\end{aligned}$$

Step 2: Find the second derivative and plug in the value of t to get the concavity.

Since we know $\frac{dy}{dx} = -\cot(t)$, differentiate and divide by $\frac{dx}{dt}$ to find the second derivative:

$$\begin{aligned}
\frac{d^2y}{dx^2} &= \frac{\frac{d}{dt}\left(-\cot(t)\right)}{\frac{dx}{dt}} \\
&= \frac{\csc^2(t)}{-4\sin(t)} \\
-\frac{\csc^2(t)}{4\sin(t)}|_{t=\frac{\pi}{4}} &= -\frac{\sqrt{2}}{2} \\
&\boxed{\text{concave down}}
\end{aligned}$$

Horizontal and vertical tangents

If $\frac{dy}{dt} = 0$ and $\frac{dx}{dt} \neq 0$, then there is a **horizontal tangent**.

If $\frac{dx}{dt} = 0$ and $\frac{dy}{dt} \neq 0$, then there is a **vertical tangent**.

Arc length formula

For parametric equations $x = f(t)$ and $y = g(t)$, the arc length from $t = a$ to $t = b$ is given by the formula:

$$L = \int_a^b \sqrt{\left(\frac{dx}{dt}\right)^2 + \left(\frac{dy}{dt}\right)^2}\, dt$$

Vectors

A vector is a quantity that has both magnitude and direction. Vectors can be represented in component form as $\mathbf{v} = \langle v_1, v_2 \rangle$.

position vector $\mathbf{r}(t) = \langle x(t), y(t) \rangle$

velocity vector $\mathbf{v}(t) = \langle x'(t), y'(t) \rangle$

acceleration vector $\mathbf{a}(t) = \langle x''(t), y''(t) \rangle$

Below are the formulas for displacement, speed, and distance travelled:

Displacement (vector), the change in position (points from the starting position to the ending position)

$$\left\langle \int_{t_0}^{t_1} v_x(t)\, dt, \int_{t_0}^{t_1} v_y(t)\, dt \right\rangle$$

(note that $v_x(t)$ **and** $v_y(t)$ **are equivalent to** $x'(t)$ **and** $y'(t)$, respectively)

Speed (scalar), the magnitude of the velocity vector

$$\sqrt{v_x(t)^2 + v_y(t)^2}$$

or

$$\sqrt{x'(t)^2 + y'(t)^2}$$

Distance travelled (scalar), the total length of the path taken

Same as the arc length formula:

$$\int_{t_0}^{t_1} \sqrt{v_x(t)^2 + v_y(t)^2}\, dt$$

Example: An object moving along a curve in the xy-plane has position $(x(t), y(t))$ at time t with $\frac{dy}{dt} = 2 + \sin(e^t)$. The derivative $\frac{dy}{dx}$ is not explicitly given. At $t = 3$, the object is at the point $(4, 5)$. Find the y-coordinate of the position at time $t = 1$.

Step 1: Thinking logically, to find the y-coordinate at $t = 1$, we work backwards from $t = 3$ to $t = 1$ using the given derivative $\frac{dy}{dt}$. $y(3)$ can be found by integrating $\frac{dy}{dt}$ from $t = 1$ to $t = 3$ and adding the result to $y(1)$, so to find $y(1)$, we can use the following formula:

$$y(1) = 5 - \int_1^3 (2 + \sin(e^1))\, dt$$

The change is being subtracted, not added, as we are going earlier in time.

Solving with a calculator, $\boxed{y(1) \approx 1.27}$

Polar coordinates

A polar coordinate is written in the form (r, θ), where r is the distance from the origin and θ is the angle measured counterclockwise from the positive x-axis.

To convert polar to rectangular coordinates:

$$x = r\cos(\theta)$$
$$y = r\sin(\theta)$$

Area of a polar region

The area of a region bounded by a polar curve $r = f(\theta)$ from $\theta = a$ to $\theta = b$ is given by the formula:

$$A = \frac{1}{2}\int_a^b (f(\theta))^2 \, d\theta$$

Example: Find the area bounded as shown by $r(\theta) = 2\cos(3\theta)$ and $r = \sqrt{3}$ with a calculator.

Step 1: Graph the equation.

The area is the region between the two curves, which is shaded in the graph below:

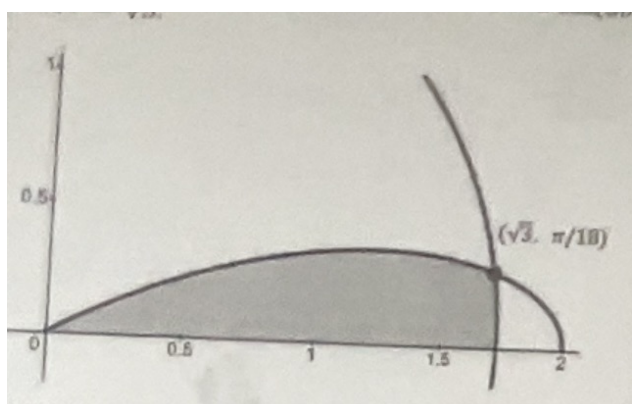

Step 2: Find the points of intersection.

The point of intersection $(\sqrt{3}, \frac{\pi}{18})$ is already given, but can be found by setting the two equations equal to each other $(2\cos(3\theta) = \sqrt{3})$ and solving for θ.

Step 3: Find where the bounds of the area are.

The bounds of the area of the circle are $\theta = 0$ to $\theta = \frac{\pi}{18}$, and the bounds of the area of the petal are $\theta = 0$ to $\theta = \frac{\pi}{6}$ (found using a calculator).

Step 4: Find the area.

When integrating with respect to θ, the bound is no longer the x-value or the y-value but the angle θ. Essentially, we are finding the area underneath the function to the angle, not the area underneath the function to an axis.

Looking at the graph, the integral of the circle wrt θ can be added to the integral of the petal wrt θ from where the circle ends ($\frac{\pi}{18}$) to the end of the petal ($\frac{\pi}{6}$) to get the total area.

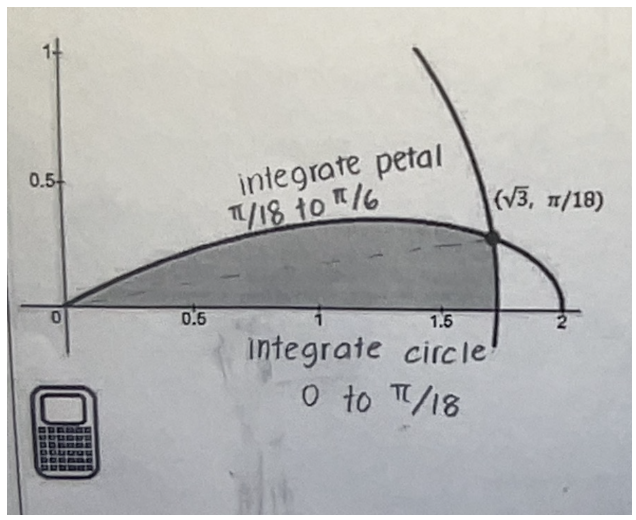

First, the area of the circle that constitutes part of the petal:

$$A_{\text{circle}} = \frac{1}{2}\int_0^{\frac{\pi}{18}} (\sqrt{3})^2 \, d\theta$$

Now, the area remaining is calculated by taking the upper piece only (from $\pi/18$ to $\pi/6$):

$$A_{\text{petal}} = \frac{1}{2}\int_{\frac{\pi}{18}}^{\frac{\pi}{6}} (2\cos(3\theta))^2 \, d\theta$$

Using a calculator, computing

$$A = \frac{1}{2}\int_0^{\frac{\pi}{18}} (\sqrt{3})^2 + \, d\theta + \frac{1}{2}\int_{\frac{\pi}{18}}^{\frac{\pi}{6}} (2\cos(3\theta))^2 \, d\theta$$

$$\boxed{A \approx 0.467 \text{ units}^2}$$

Example: Find the area between the outer loop and inner loop of $r = 2\theta\sin\theta$ for θ from 0 to 2π, inclusive.

Step 1: Graph the equation.

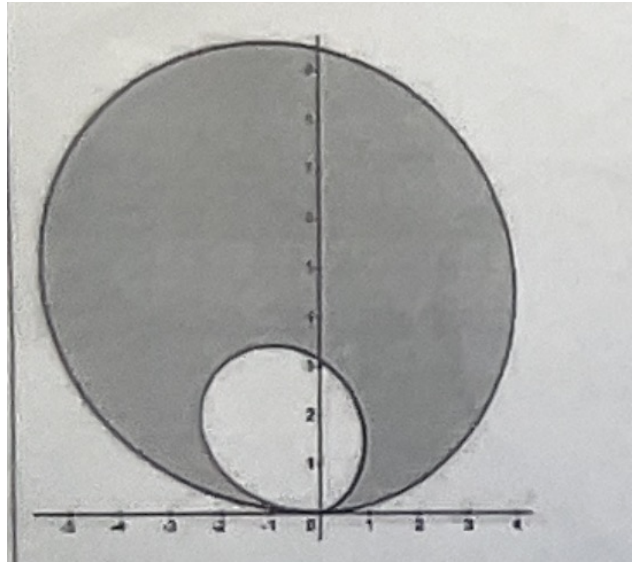

Step 2: Find the bounds of the inner and outer loops with a calculator.

Inner: $0 \leq \theta \leq \pi$
Outer: $\pi \leq \theta \leq 2\pi$

Step 3: Subtract the outer area from the inner area. Use a calculator to solve.

$$\int_0^{\pi} \frac{1}{2}(2\theta \sin\theta)^2 \, d\theta - \int_{\pi}^{2\pi} \frac{1}{2}(2\theta \sin\theta)^2 \, d\theta$$
$$= \boxed{62.013 \text{ units}^2}$$